# Chapitre 16 - Solides – Pyramides et cônes

## Activité Introduction

Donner le nom de chacun des solides suivants :

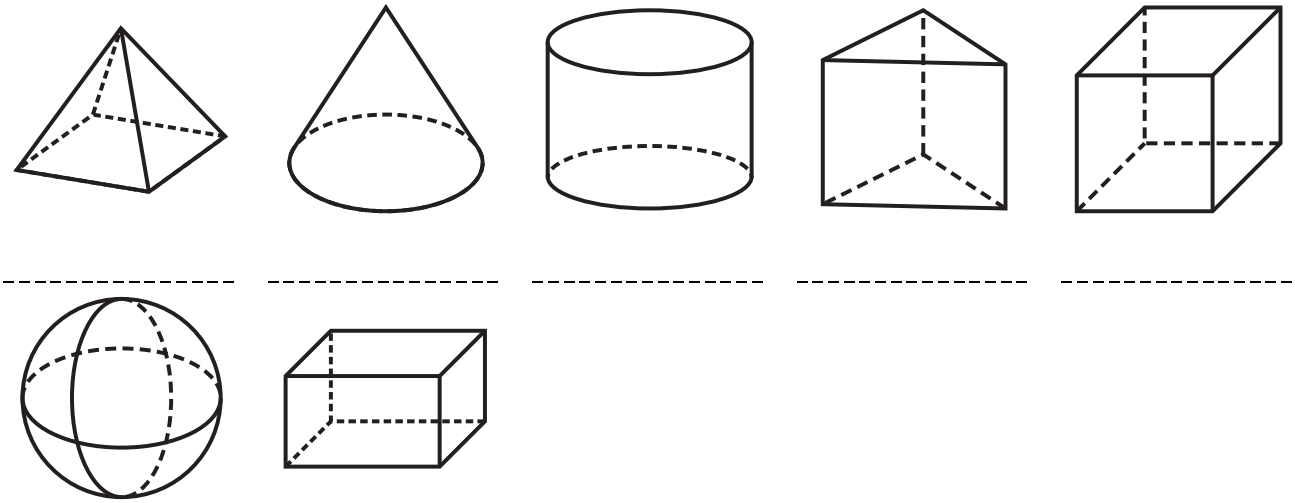

--- --- --- --- ---

--- ---

## I – Représentation de solide dans l'espace :

### 1) Patrons :

---

---

---

### 2) Solides usuelles :

#### a. *Pavés droits et cubes :*

---

---

---

**Perspective :** **Patron :** **Perspective :** **Patron :**

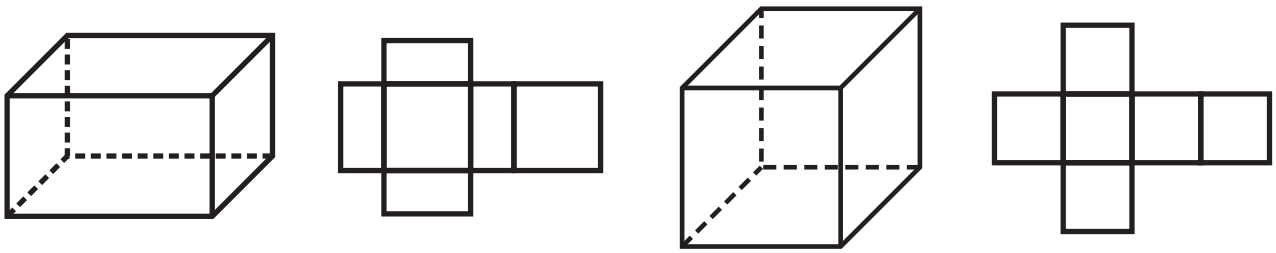

### b. Cylindres :

**Perspective :**

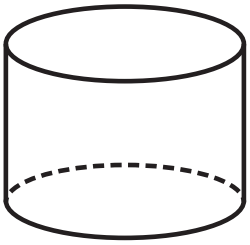

**Patron :**

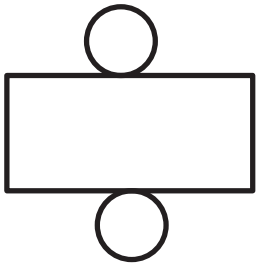

### c. Prismes :

**Perspective :**

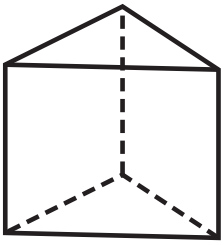

**Patron :**

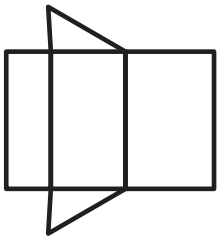

### d. Pyramides :

**Perspective :**

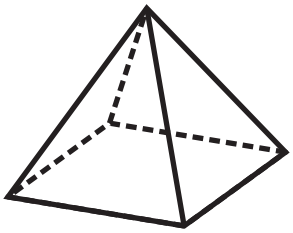

**Patron :**

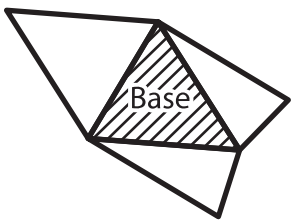


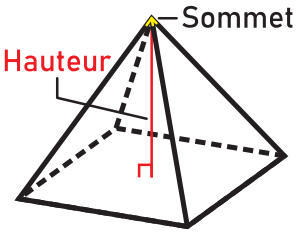

*Remarques :*

- La base hachurée dans le patron peut-être un polygone quelconque
- Un polygone qui a tous ses côtés de même longueur et tous ses angles de même mesure et dit régulier.

---
---
---
---

### e. ***Cônes de révolution :***

---
---
---
---

**Perspective :** **Patron :**

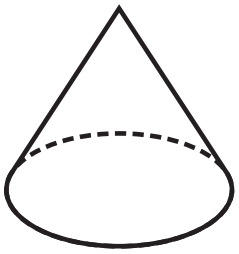

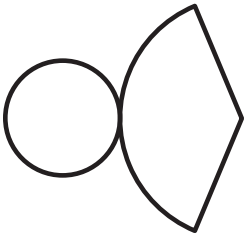

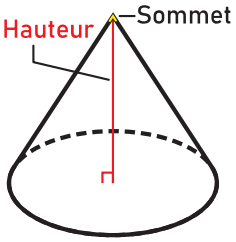


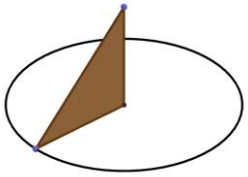

# II - Volume :

## 3) Pavé droit :

**Formule :**

---
---
---

**Perspective :**

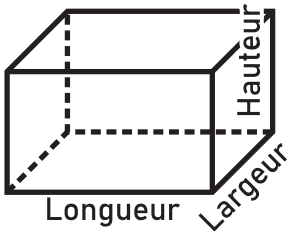


**Exemple :**
Un pavé droit de dimension 5cm par 3cm par 7cm a pour volume :

## 4) Cube :

**Formule :**

---
---
---

**Perspective :**

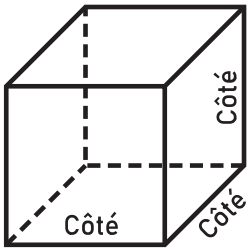


**Exemple :**
Un cube de côté 4 cm a pour a pour volume :

## 5) Cylindre :

**Formule :**

---

---

---

**Perspective :**

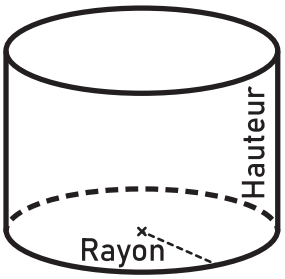


**Exemple :**
Un cylindre de rayon 3cm et de hauteur 6cm a pour volume :

## 6) Prisme :

**Formule :**

---

---

---

**Perspective :**

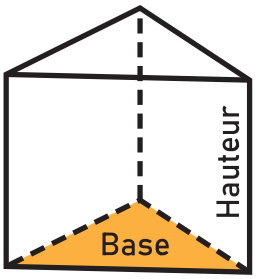


**Exemple :**
Un prisme dont la base a une aire de 12cm² et de hauteur 6cm a pour volume :

## 7) Pyramide :

**Formule :**

---

---

---

**Perspective :**

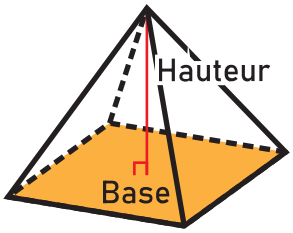


**Exemple :**
Une pyramide de base carré de 5cm de côté et de hauteur 6cm a pour volume :

## 8) Cône :

**Formule :**

---

---

---

**Perspective :**

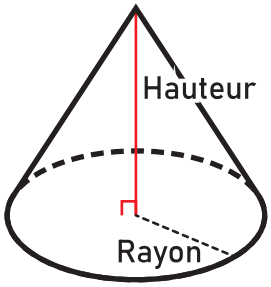


**Exemple :**
Un cône de rayon 3cm de côté et de hauteur 2cm a pour volume :